VIDYAPEETH

BATCH CODE: 12-AN181MA 2026

SUBJECT NAME: PHYSICS

CHAPTER NAME:
UNITS AND MEASURMENT

Lecture No. 01

By-Navneet Shrivastava

Today's Goal

Subtopic General Discussion

Subtopic UNDERSTANDING CLASSIFICATION OF PHYSICS

Subtopic

General Discussion

$x < 2000$

"Discipline" → Painful

↓

"Mindset should be changed"

असाधारण

Mobile / frnd circle

Discipline

Consistency

Motivation

1. Distraction → Mobile limitation → Unistall SM Reel

2. Procastination → Challenge yourself.

$\boxed{2+2} + \boxed{2+2}$

4 1

3. Comfort Zone

4. Habit

5. LAZINESS.

6. XSocial Pressure →

7

8 + 8 + 8

Self Study → Sleep → Life

What is the Ebbinghaus Forgetting Curve?

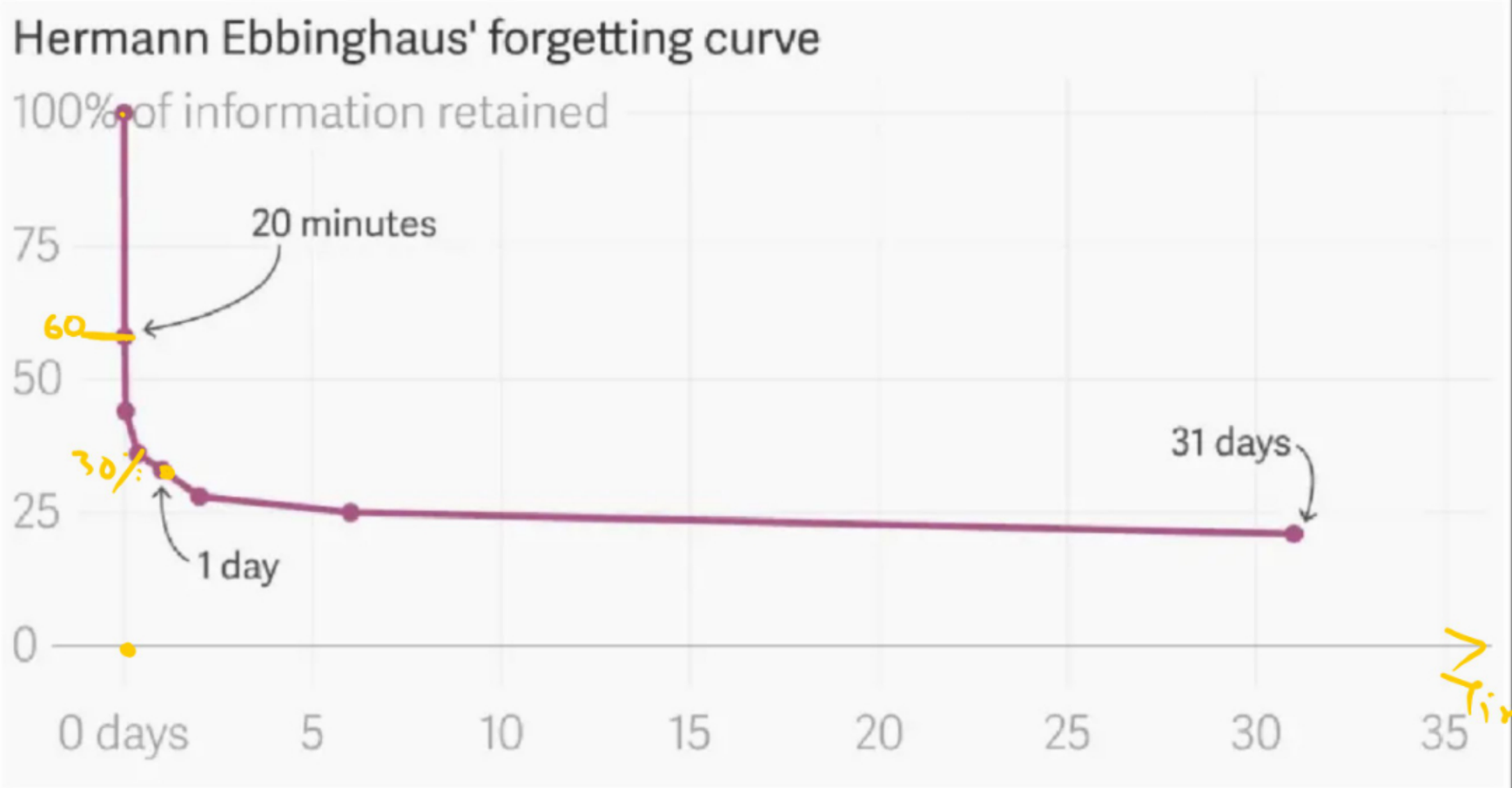

The Ebbinghaus forgetting curve is a graphical representation of the forgetting process. The curve demonstrates the declining rate at which information is lost if no particular effort is made to remember it. The forgetting curve was defined in 1885 by German psychologist Hermann Ebbinghaus (1850-1909) in his book *Memory*.

Rate of forgetting

Typical Forgetting Curve for Newly Learned Information

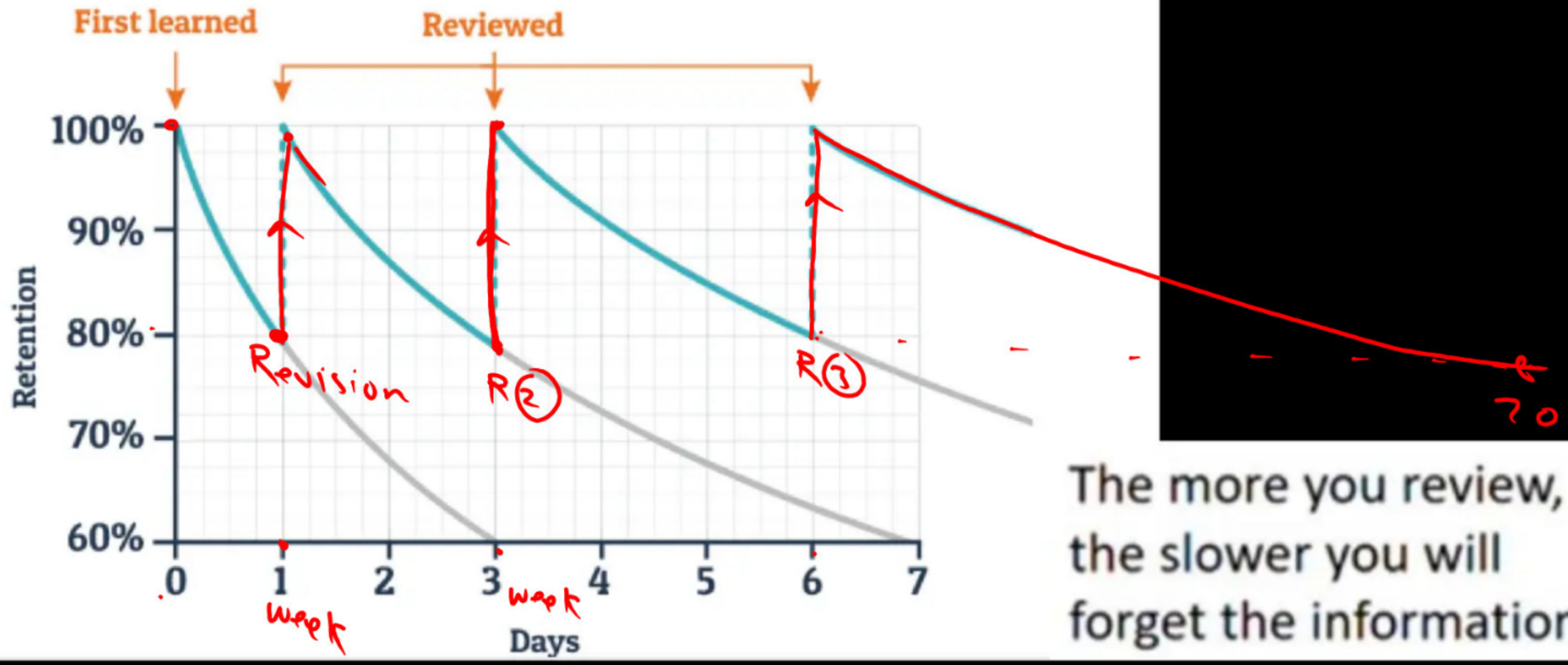

SHORT NOTES

The more you review, the slower you will forget the information.

Exam crack

- study
- Revision ★★★★★

Take some secret pledge on your Day 1 as

NEET ASPIRANT

CLASSIFICATION OF PHYSICS

UNITS AND MEASURMENT

Physical Quantities:

Topic: Homework-1

- DPP

DPP NO	Question No
DPP -1	
DPP -2	

- Module
  - Exercise Name

Module Page No	Question No
Page No- 21	
Page No -22	

Next Lecture's Goal

Chap Name ..

1. Sub Top ..
2. Sub Top ..
3. Sub Top ..
4. Sub Top ..
5. Sub Top ..

★★★★★

Rate your today's class in the Batch

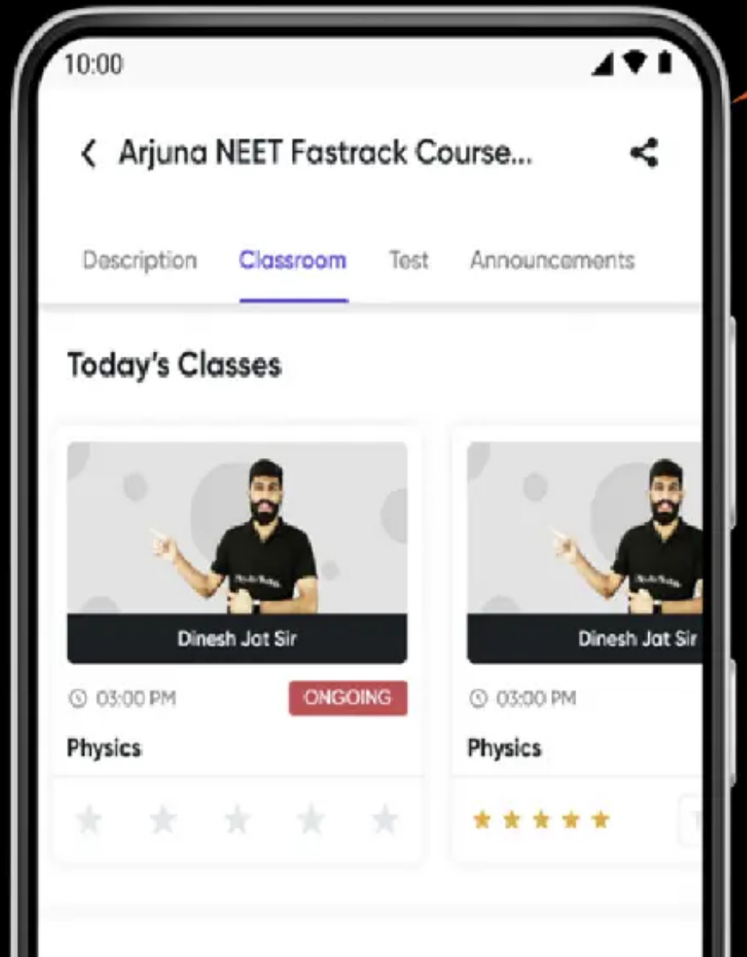

"SCAN" to join our "TELEGRAM" channel

Solve the DPP and check Solution

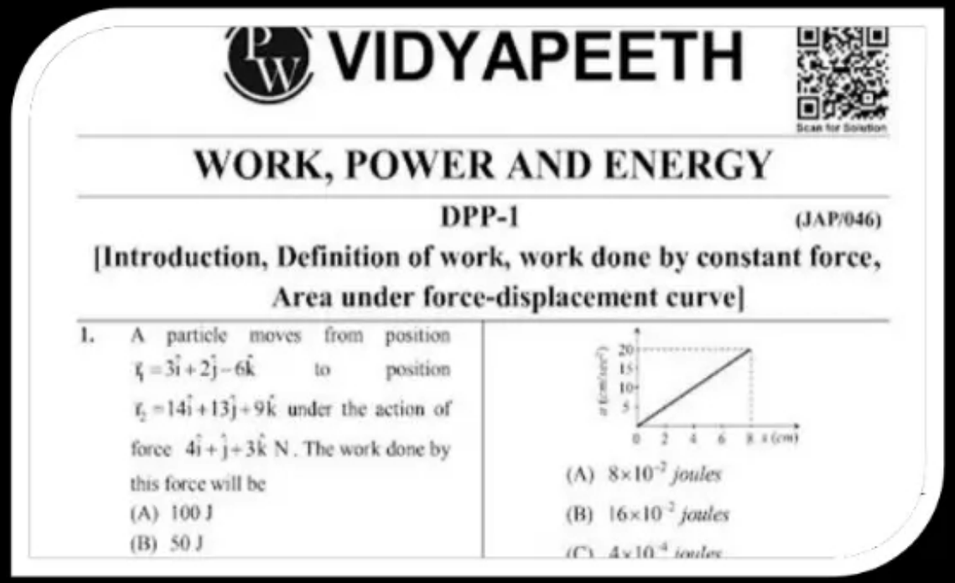

VIDYAPEETH

Scan for Solution

WORK, POWER AND ENERGY

DPP-1 (JAP/046)

[Introduction, Definition of work, work done by constant force, Area under force-displacement curve]

1. A particle moves from position $\vec{r}_1 = 3\hat{i} + 2\hat{j} - 6\hat{k}$ to position $\vec{r}_2 = 14\hat{i} + 13\hat{j} + 9\hat{k}$ under the action of force $4\hat{i} + \hat{j} + 3\hat{k}$ N. The work done by this force will be

(A) 100 J

(B) 50 J

(A) 8×10^{-2} *joules*

(B) 16×10^{-2} *joules*

Thank You!!!!

Check your performance through Student Dashboard